ELEX212 Electronic Principles 1

RECTIFIER CIRCUITS

Laboratory Activity 2

Leader: _____

Date: _____ Rating: _____

Members: _____

_____

_____

_____

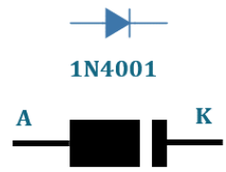

EXERCISE 1 POSITIVE HALF-WAVE RECTIFIER

Step 1 Set-up the given network

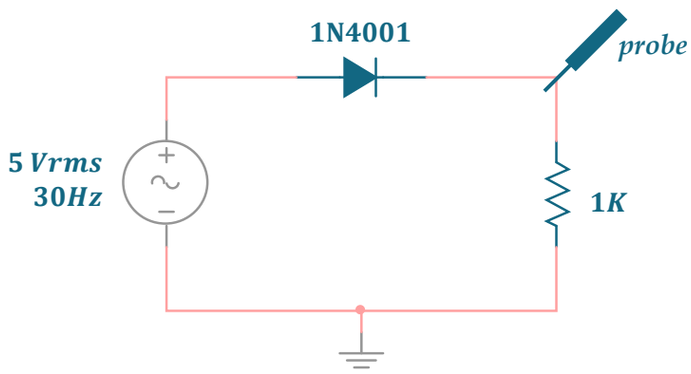

Step 2 Determine the peak voltage, Vp and the output frequency, fo

$Vp =$

$fo =$

Step 3 Capture and attached the **waveform** (simulation and actual)

EXERCISE 2 NEGATIVE HALF-WAVE RECTIFIER

Step 1 Set-up the given network

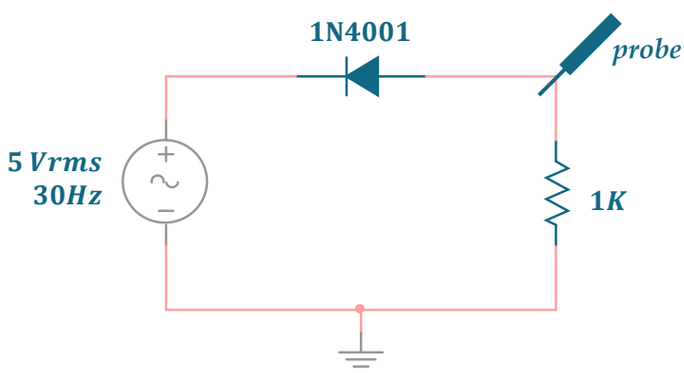

Step 2 Determine the peak voltage, Vp and the output frequency, fo

$Vp =$

$fo =$

Step 3 Capture and attached the **waveform** (simulation and actual)

EXERCISE 3 POSITIVE FULL-WAVE RECTIFIER (BRIDGE TYPE)

Step 1 Set-up the given network

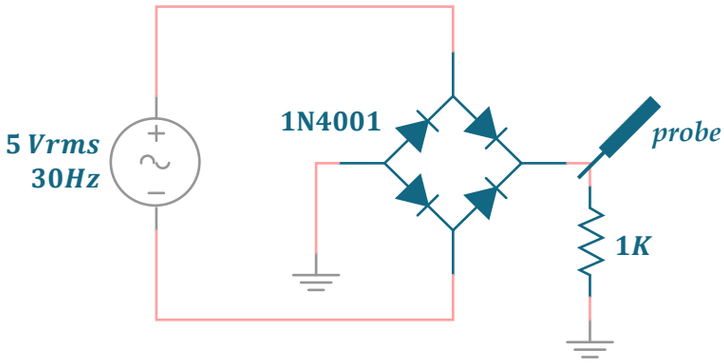

Step 2 Determine the peak voltage, Vp and the output frequency, fo

$Vp =$

$fo =$

Step 3 Capture and attached the **waveform** (simulation and actual)

EXERCISE 4 NEGATIVE FULL-WAVE RECTIFIER (BRIDGE TYPE) CIRCUIT

Step 1 Design a NEGATIVE full-wave rectifier (bridge type) circuit

Step 2 Determine the peak voltage, Vp and the output frequency, fo

$Vp =$

$fo =$

Step 3 Capture and attached the **waveform** (simulation and actual)

Conclusion: